AP HOGESCHOOL ANTWERPEN

Opslagcapaciteit van RAID configuraties berekenen

1 RAID0

1.1 Configuratie 1



Totale opslagcapaciteit = ……1000 gb

1.2 Configuratie 2



Totale opslagcapaciteit = ……1400 gb

2 RAID1

2.1 Configuratie 1



Totale opslagcapaciteit = ……500

2.2 Configuratie 2



Totale opslagcapaciteit = ……500

2.3 Configuratie 3



Totale opslagcapaciteit = 500

3 RAID5

3.1 Configuratie 1



Totale opslagcapaciteit = ……600 gb

3.2 Configuratie 2



Totale opslagcapaciteit = ……800 gb

4 RAID10

4.1 Configuratie 1

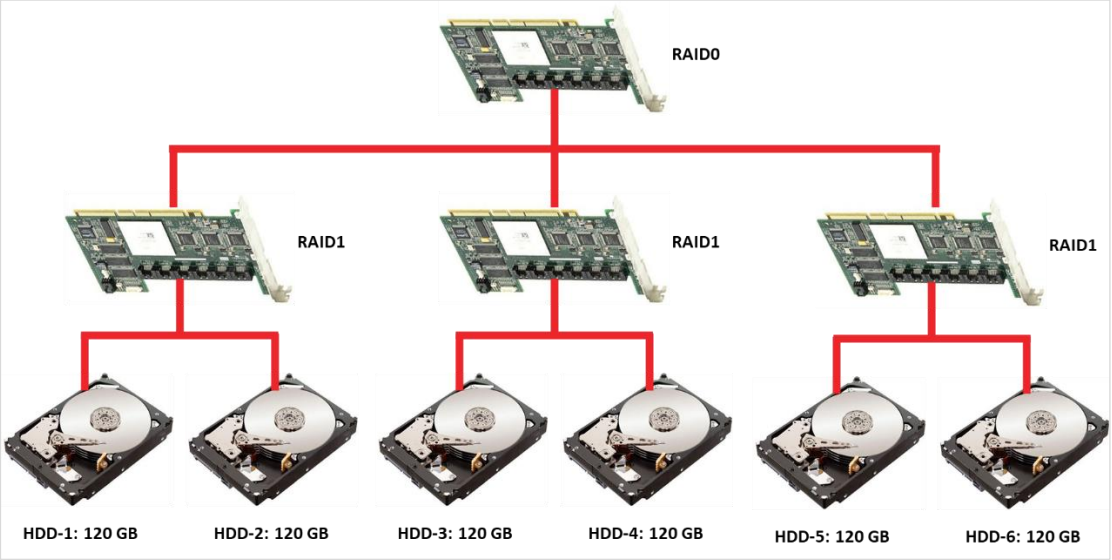

Totale opslagcapaciteit = ……360

4.2 Configuratie 2

Zelfde setup als configuratie 1 maar telkens 3 schijven van 500 GB per RAID1 volume.

Totale opslagcapaciteit = ……1,5TB

5 RAID01

5.1 Configuratie 1

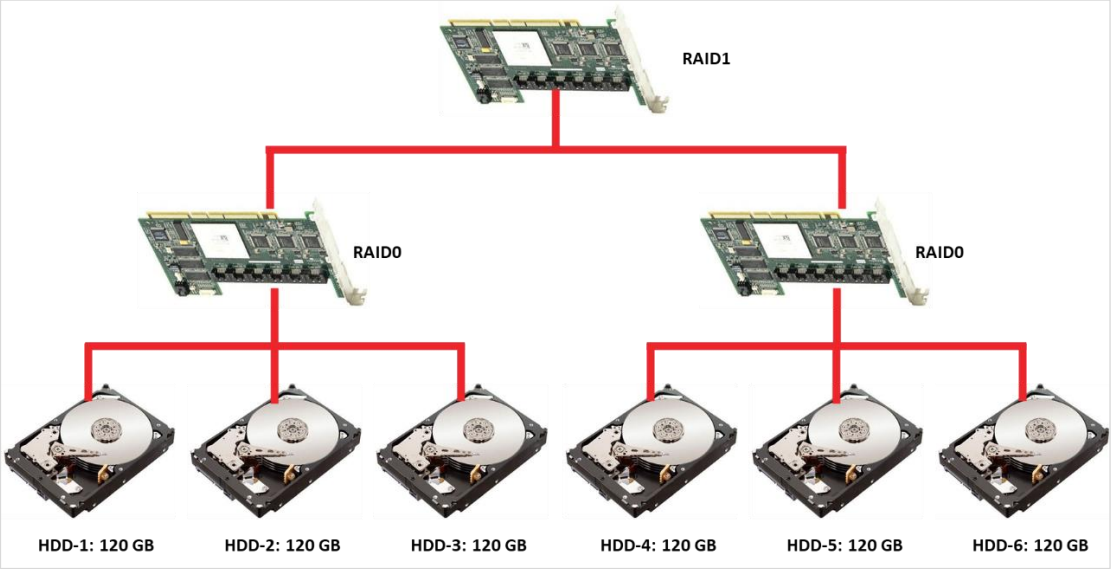

Totale opslagcapaciteit = ... 240 GB